
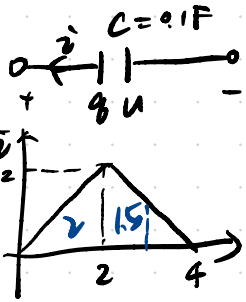


① 

$t=0s$. $u_C(0)=-3.5V$

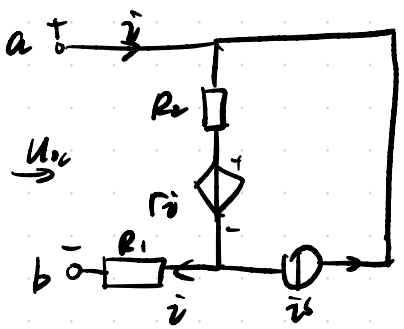
$t=3s$. $u_C=?$

$Q=Cu$.

$$u=\frac{1}{C}\int_{t_0}^{3} i(\xi)\,d\xi$$

$$=\frac{1}{C}\int_{0}^{3} i(\xi)\,d\xi - 3.5V$$

$$=-35V-3.5V=-38.5V$$

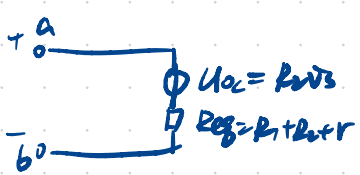
② 

求等效电阻，先移独立

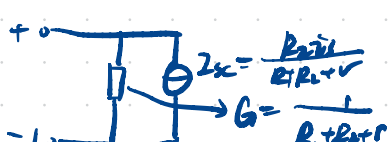
① 求u_{oc}. $i=0$. $u_{oc}=R_2 i_s$.

② 求R_{eq} $R_{eq}=\frac{(R_2+R_1+r)i}{i}=R_1+R_2+r$

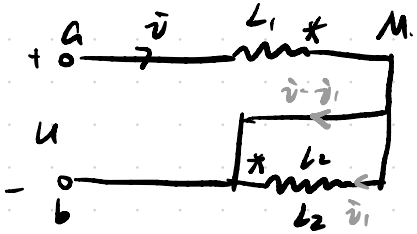
开：



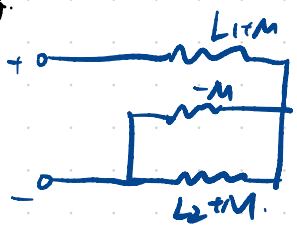
短：



③



$\Rightarrow$ 化Leq.

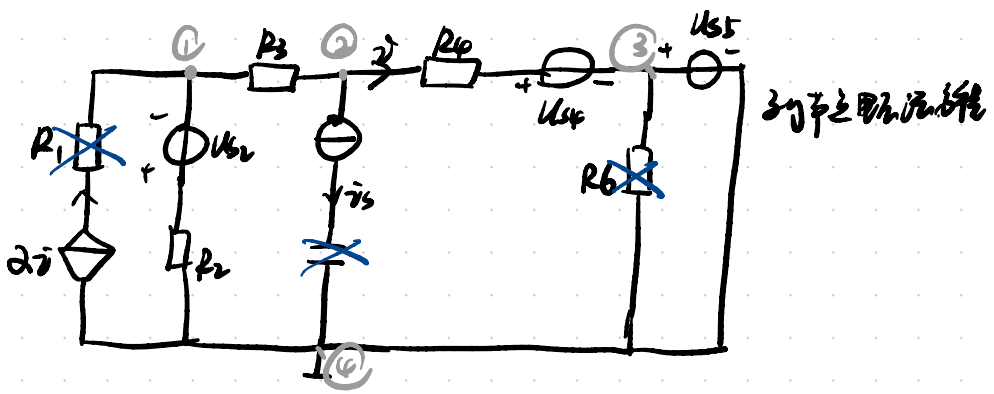


$$L_{eq} = L_1+M+\frac{(L_2+M)(-M)}{L_2+M-M} = L_1+M-M-\frac{1}{L_2}M^2 = L_1-\frac{1}{L_2}M^2$$

$$\mathcal{E} = L_1\frac{d\dot{v}}{dt}+M\frac{d\dot{v}_1}{dt}+\underbrace{L_2\frac{d\dot{v}_1}{dt}+M\frac{d\dot{v}}{dt}}_{=0}$$

$$=\left(L_1+M\cdot\left(-\frac{M}{L_2}\right)\right)\frac{d\dot{v}}{dt} \Rightarrow L_{eq}=L_1-\frac{1}{L_2}M^2$$

④



3个节点电压法

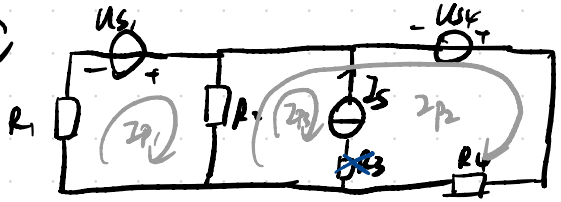
① : $\left(\frac{1}{R_2}+\frac{1}{R_3}\right)U_{n1}-\frac{1}{R_3}\cdot U_{n2}=2\dot{v}-U_{S2}$

② : $\left(\frac{1}{R_3}+\frac{1}{R_4}\right)U_{n2}-\frac{1}{R_3}U_{n1}-\frac{1}{R_4}U_{n3}=\frac{U_{S4}}{R_4}-\dot{v}_S$

③ : $U_{n3}=U_{S5}$

$\dot{v}=\frac{1}{R_4}\cdot(U_{n2}-U_{n3}-U_{S4})$

⑤



3为回路电流法绘制

$$\begin{cases} U_{S1} = (I_{P1} - I_{P2} - I_{P3})R_2 + I_{P1}R_1 \\ I_{P2} = -I_S \\ U_{S4} = I_{P2}R_4 + (I_{P2} + I_{P3} - I_{P1})R_2 \end{cases}$$

⑥ 2台发 $S_N = 100k\ V\cdot A$ $U_N = 220V$ 日光：$P = 4kW$ 白炽：$P = 10W$ $\lambda = 95\%$

(1) 一个白炽+1个日光为一组 数为 N组？求N的值？ $\lambda = 1$

$$\lambda = \cos\theta = \frac{2}{5} \Rightarrow \tan\theta = \frac{\sqrt{21}}{2}$$

$$\Rightarrow S = P\cdot\tan\theta = 5\sqrt{21}\ Var \Rightarrow S_{总} = \sqrt{(10W + 4kW)^2 + S^2}$$

$$= 55\ VA$$

$$\Rightarrow N = \left\lfloor \frac{S_N}{S_{总}} \right\rfloor = \frac{1\times10^5\ VA}{55\cdot VA} = 1818 \quad I = \frac{S_N}{U_N} = 454.54\ A$$

(2) 并联 -||- 使 $\lambda' = 98\%$ 求 C？ 此时I？ $\omega = 2\pi f = 100\pi\ rad/s$

$$\Delta Q = 1\times10^5 V\cdot A \cdot \frac{10}{11}\cdot\left(\frac{\sqrt{21}}{10} - \frac{\sqrt{1-(98)^2}}{0.98}\right) = 23199.90\ Var$$

$$= \omega C U^2 \Rightarrow C = \frac{\Delta Q}{\omega U^2} = 1.53\times10^{-3} F$$



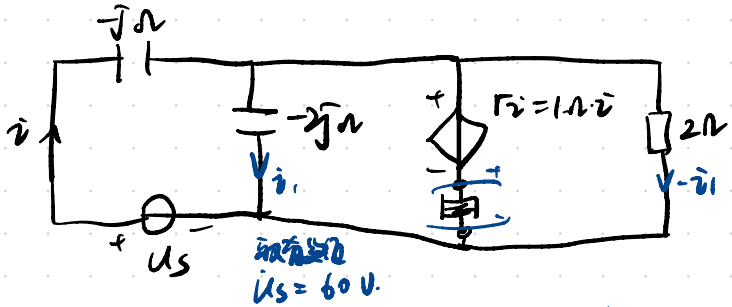
$10 = \sqrt{21}\cdot 11$

$$I = \frac{1\times10^5 VA\cdot\frac{10}{11}\cdot\frac{100}{98}}{220V} = 421.66A$$

(iii) 每次输入的功率最大？

$$n=\left[\frac{-1\times10^{5}\,V\cdot A\cdot\frac{10}{11}\cdot\frac{\sqrt{50}}{98}+1\times10^{5}\,V\cdot A}{40W}\right]=180\ 盏$$

⑦ $u_s=60\sqrt{2}\cos\omega t$　　求负载获得最大功率时的 Z_{load} 和 P_{max} = ?



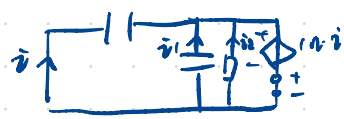
开路端口
$\dot{U}_s=60\ V$

① 求 U_{oc} ⇒ $\dot{U}=\frac{\dot{U}_s}{-j+\frac{-j1}{2-j}}=\frac{\dot{U}_s}{1-j}=\dot{U}_s\cdot\frac{1+j}{2}$　　开路端口值！

$=(24-12j)\ V$

⇒ $U_{oc}=\dot{U}_s+j\dot{i}-1\cdot\dot{i}=\dot{U}_s\cdot\left(1-\frac{1+j}{2}\cdot(1+j)\right)=\dot{U}_s\cdot\left(\frac{2}{5}-\frac{1}{5}j\right)$

② 求 Z_{eq}



$-j\dot{i}=-2j\dot{i}_1=2\dot{i}_2$

$$Z_{eq}=\frac{j\dot{U}-1\Omega\cdot\dot{i}}{-(\dot{i}+\dot{i}_1+\dot{i}_2)}=\frac{-j+1}{1+2-\frac{1}{2}j}$$

$$=\frac{2(1-j)(2+j)}{5-j(1-j)}=\frac{1}{5}(4-3j)$$

⇒ $\frac{R}{L}=0.8+0.6j$

$$P_{max}=\frac{(24^2+12^2)}{4\times0.8}=225\ W$$